UNIVERSIDAD PONTIFICIA BOLIVARIANA – INGENIERÍAS – CENTRO DE CIENCIAS BÁSICA

TALLER # 2 (Trabajo Autónomo)

El material que se presenta a continuación ha sido consultado con fines académicos de https://recursosdidacticos.org/clasificacion-de-triangulos-para-primero-de-secundaria/ (Enero 19 de 2021)

# TRIÁNGULOS

## Clasificación de los triángulos

CLASIFICACIÓN DE LOS TRIÁNGULOS

A. CLASIFICACIÓN SEGÚN SUS ÁNGULOS.

**Δ Acutángulo**

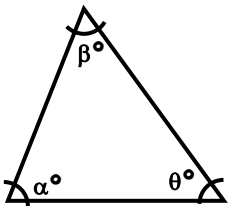


| | | |
|---|---|---|
| α° | < | 90° |
| β° | < | 90° |
| θ° | < | 90° |

**Δ Rectángulo**

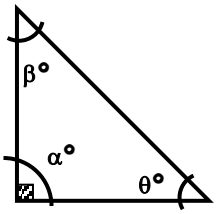


| | | |
|---|---|---|
| α° | = | 90° |
| β° | < | 90° |
| θ° | < | 90° |

**Δ Obtusángulo**

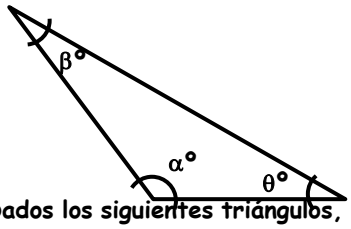


| | | |
|---|---|---|
| α° | > | 90° |
| β° | < | 90° |
| θ° | < | 90° |

B. CLASIFICACIÓN SEGÚN SUS LADOS

♠ **Δ Escaleno**

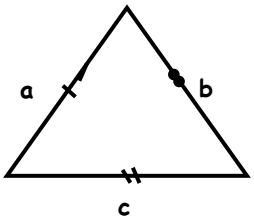


$a \neq b \neq c$

♠ **Δ Isósceles**

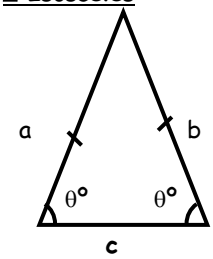


$a = b \neq c$

♠ **Δ Equilátero**

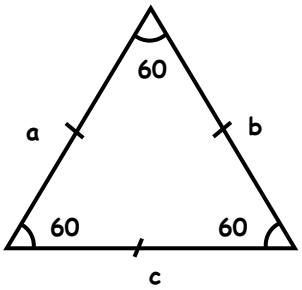


$a = b = c$

**Dados los siguientes triángulos, complete el cuadro que se da a continuación con un sí o con un no según corresponda:**

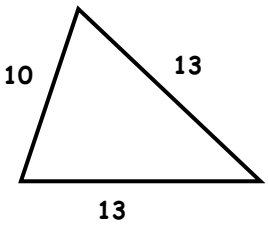


1

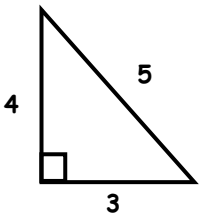


2

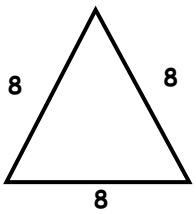


3

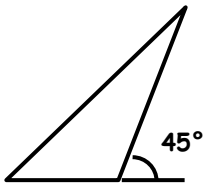


4

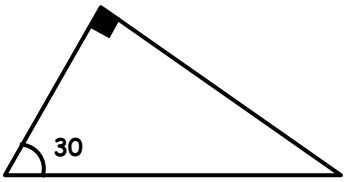


5

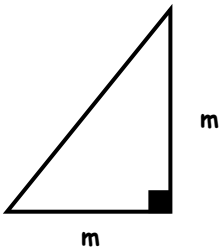


6

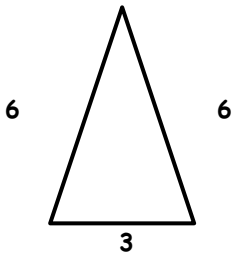


7

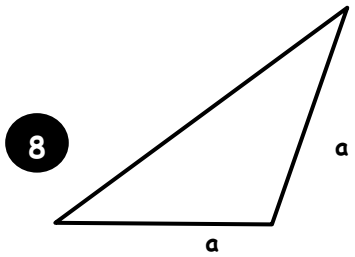


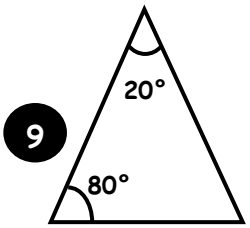


| TRIÁNGULO | 1 | 2 | 3 | 4 | 5 | 6 | 7 | 8 | 9 |
|---|---|---|---|---|---|---|---|---|---|
| EQUILÁTERO | | | | | | | | | |
| ISÓSCELES | | | | | | | | | |
| ESCALENO | | | | | | | | | |
| RECTÁNGULO | | | | | | | | | |
| ACUTÁNGULO | | | | | | | | | |
| OBTUSÁNGULO | | | | | | | | | |

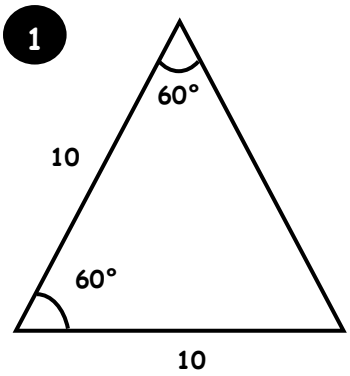


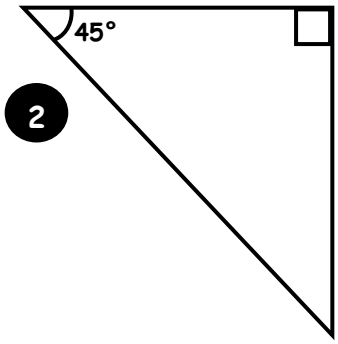


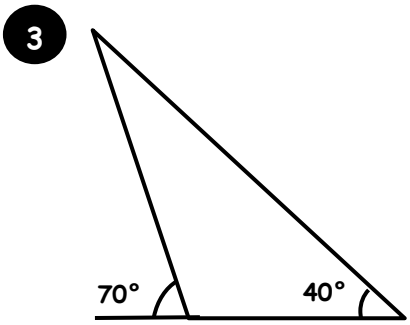


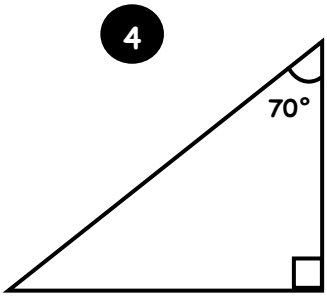


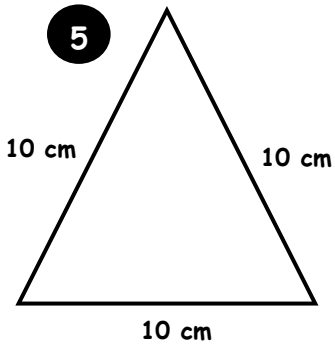


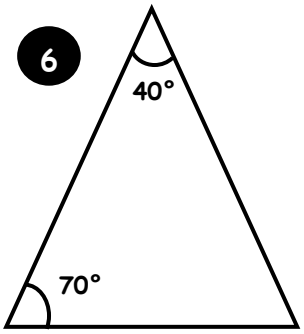


| TRIÁNGULO | 1 | 2 | 3 | 4 | 5 | 6 |
|---|---|---|---|---|---|---|
| EQUILÁTERO | | | | | | |
| ISÓSCELES | | | | | | |
| ESCALENO | | | | | | |
| RECTÁNGULO | | | | | | |
| ACUTÁNGULO | | | | | | |
| OBTUSÁNGULO | | | | | | |

## EJERCICIOS DE APLICACIÓN

1. Calcular "X"
   a) 140°
   b) 100°
   c) 120°
   d) 60°
   e) 40°

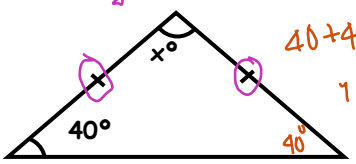


2. Calcular "x"
   a) 25°
   b) 30°
   c) 50°
   d) 130°
   e) 140°

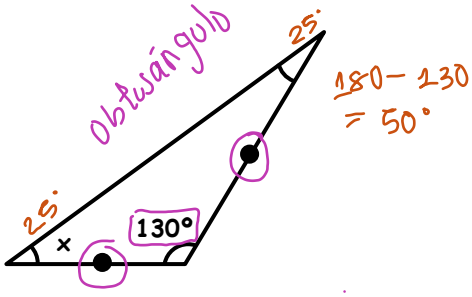


3. Calcular "x"
   a) 120°
   b) 100°
   c) 60°
   d) 90°
   e) 45°

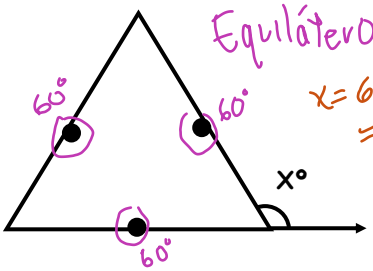


4. Calcular "x"
   a) 30°
   b) 45°
   c) 60°
   d) 120°
   e) 100°

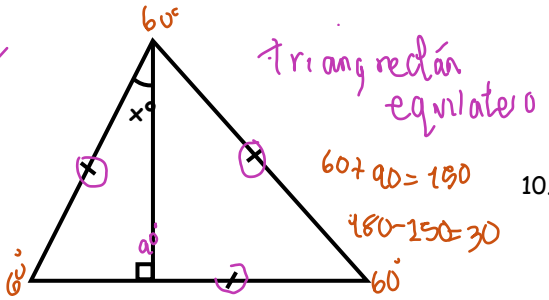


5. Calcular "x"
   a) 105°
   b) 120°
   c) 130°
   d) 30°
   e) 75°

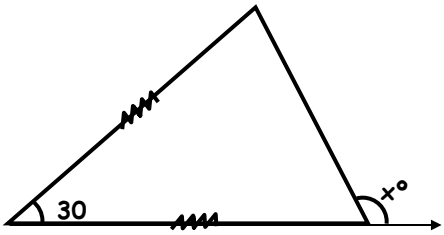


6. Calcular "x"
   a) 65°
   b) 75°
   c) 85°
   d) 55°
   e) 50°

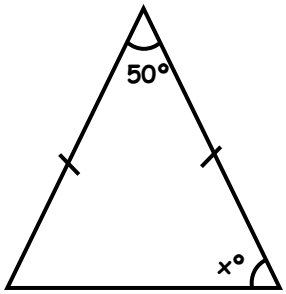


7. Del gráfico, calcular "x"
   a) 120°
   b) 100°
   c) 135°
   d) 110°
   e) 150°

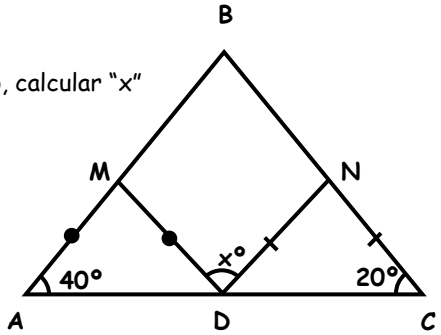


8. Del gráfico, calcular "x"
   a) 125°
   b) 100°
   c) 110°
   d) 90°
   e) 45°

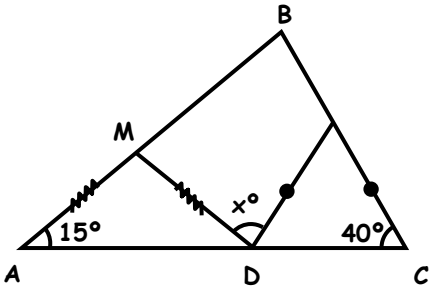


9. Calcular "x"
   a) 40°
   b) 20°
   c) 60°
   d) 70°
   e) 100°

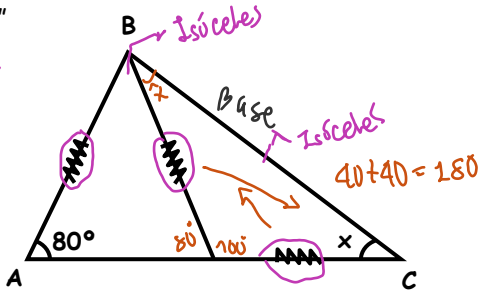


10. Calcular "x"
    a) 36°
    b) 72°
    c) 18°
    d) 54°
    e) 90°

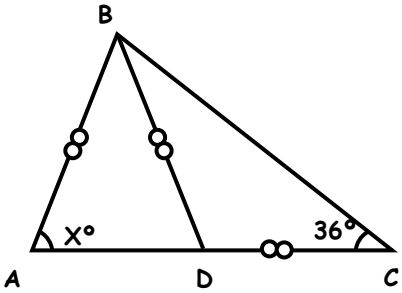


11. Calcular "x"
    a) 60°
    b) 70°
    c) 30°
    d) 45°
    e) 20°

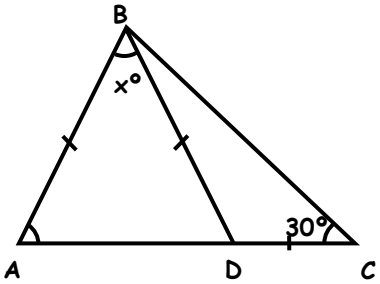

12. Calcular "x"

a) 35°
b) 70°
c) 60°
d) 30°
e) 45°

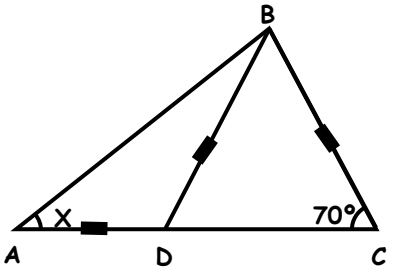


13. Calcular "x"

a) 80°
b) 70°
c) 100°
d) 110°
e) 60°

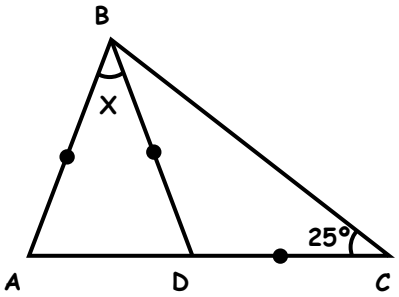


14. Calcular "x"

a) 25°
b) 50°
c) 130°
d) 135°
e) 60°

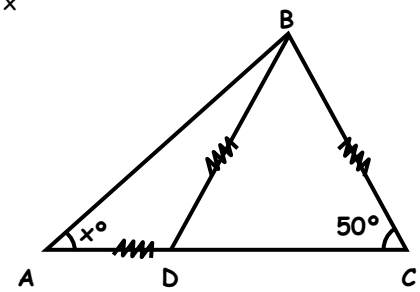


15. Calcular "x"

a) 32°
b) 45°
c) 30°
d) 60°
e) 72°

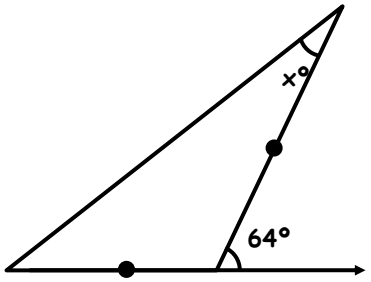


16. Calcular "x"

a) 40°
b) 80°
c) 60°
d) 30°
e) 45°

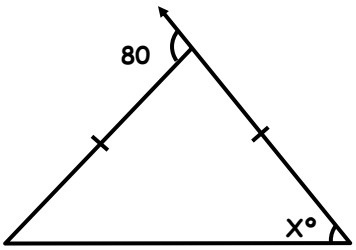


17. Calcular "x"

a) 80°
b) 40°
c) 160°
d) 70°
e) 60°

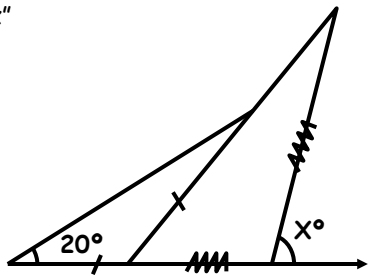


18. Calcular "x"

a) 40°
b) 50°
c) 60°
d) 20°
e) 10°

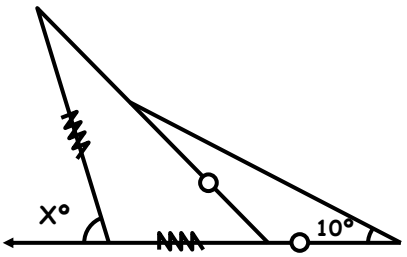


19. Calcular "α"

a) 25
b) 50
c) 75
d) 60
e) 80

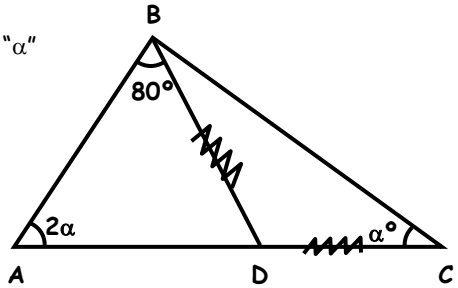


20. Calcular "θ'

a) 30°
b) 60°
c) 36°
d) 45°
e) 65°

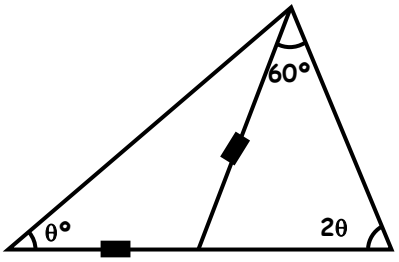


## EJERCICIOS ADICIONALES

1. Calcular "x"

a) 40°
b) 50°
c) 70°
d) 100°
e) 110°

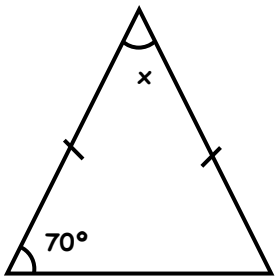


2. Calcular "x"

a) 108°
b) 36°
c) 72°
d) 144°
e) 54°

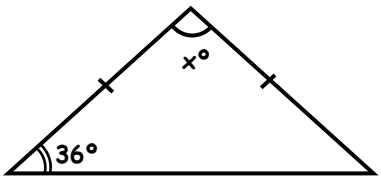


3. Calcular "x"

a) 20°
b) 10°
c) 30°
d) 60°
e) 40°

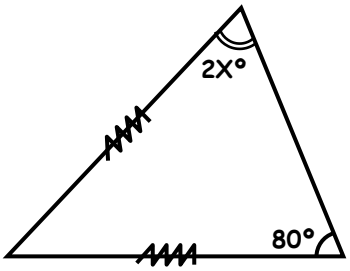

4. Calcular "x"

a) 50°
b) 60°
c) 65°
d) 130°
e) 120°

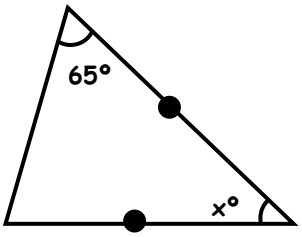


5. Calcular "x"

a) 100°
b) 120°
c) 50°
d) 80°
e) 70°

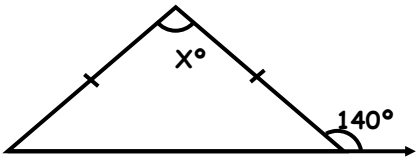


6. Calcular "x"

a) 135°
b) 125°
c) 136°
d) 146°
e) 145°

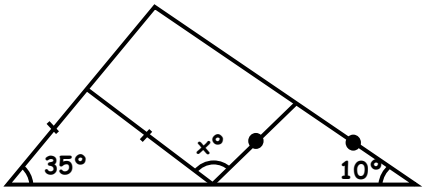


7. Calcular "x"

a) 100°
b) 90°
c) 70°
d) 80°
e) 75°

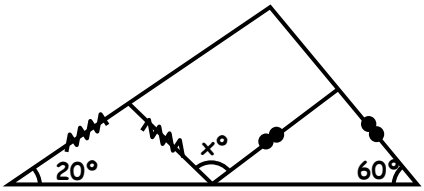


8. Calcular "x"

a) 18°
b) 108°
c) 144°
d) 36°
e) 72°

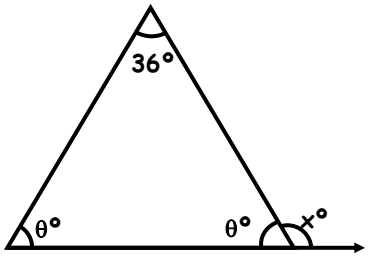


9. Calcular "x"

a) 140°
b) 120°
c) 60°
d) 160°
e) 100°

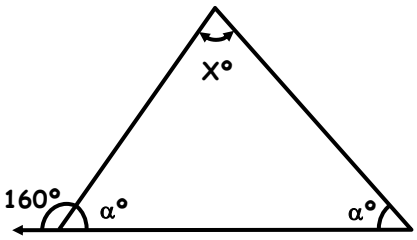


10. calcular "x"

a) 80°
b) 40°
c) 60°
d) 100°
e) 120°

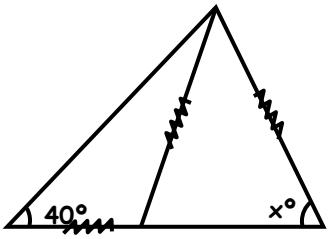


11. Calcular "x"

a) 60°
b) 30°
c) 90°
d) 36°
e) 45°

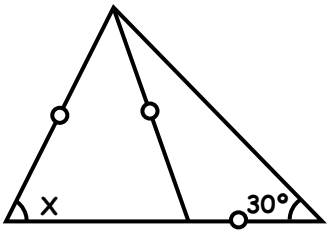


12. Calcular "x"

a) 36°
b) 54°
c) 18°
d) 44°
e) 72°

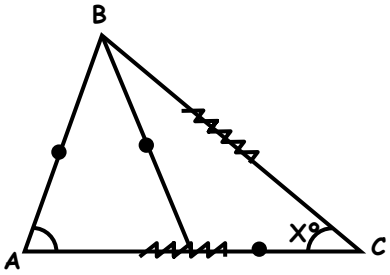


13. Calcular "x" ; (AC = BC)

a) 36°
b) 72°
c) 144°
d) 100°
e) 78°

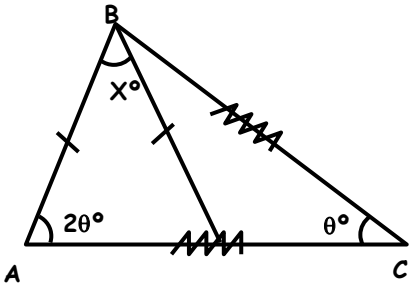


14. Calcular "x"

a) 36°
b) 72°
c) 144°
d) 140°
e) 30°

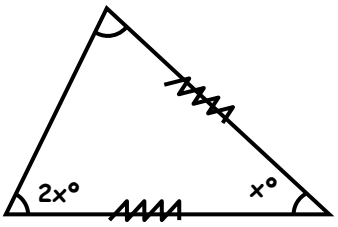


15. Calcular "x"
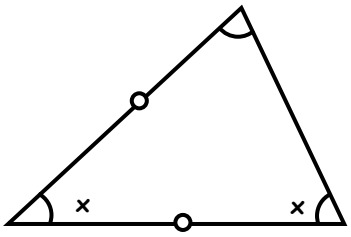
a) 30°
b) 60°
c) 90°
d) 50°
e) 75°